THE HURKLE IS A HAPPY BEAST

Hurkle? A Hurkle is a happy beast and lives in another galaxy on a planet named Lirht that has three moons. Hurkle are favorite pets of the gwik, the dominant race of Lirth and . . . well, to find out more, read "The Hurkle is a Happy Beast" in a book called A WAY HOME by Theodore Sturgeon, published by Pyramid Publications, 444 Madison Avenue, New York, NY 10022. (Unless they have moved since January, 1968.)



Happy hurkles radiate.
Scared hurkles go invisible.
We took a snapshot of a happy radiating hurkle, but the click of the camera scared him and . . . . . .

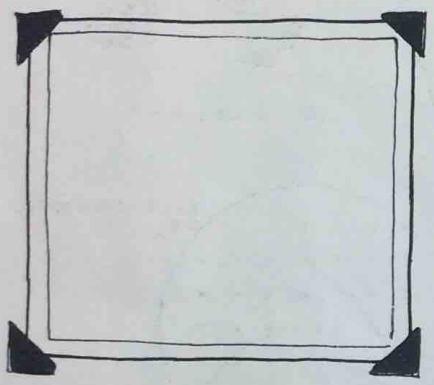

```
THE HURKLE IS HIDING - TRY TO FIND HIM!

WHAT IS YOUR GUESS?2,7
GO SOUTHEAST

WHAT IS YOUR GUESS?5,8
GO SOUTHEAST

WHAT IS YOUR GUESS?8,1
GO NORTH

WHAT IS YOUR GUESS?8,4
GO NORTH

WHAT IS YOUR GUESS?8,6

YOU FOUND HIM IN 5    GUESSES!!!
LET'S PLAY AGAIN.

THE HURKLE IS HIDING - TRY TO FIND HIM!

WHAT IS YOUR GUESS?7,5
GO WEST

WHAT IS YOUR GUESS?3,5
GO WEST

WHAT IS YOUR GUESS?1,5
GO WEST

WHAT IS YOUR GUESS?0,5

YOU FOUND HIM IN 4    GUESSES!!!
LET'S PLAY AGAIN.

THE HURKLE IS HIDING - TRY TO FIND HIM!

WHAT IS YOUR GUESS?9,9
GO SOUTHWEST

WHAT IS YOUR GUESS?0,0
GO NORTHEAST

WHAT IS YOUR GUESS?5,5
GO EAST

WHAT IS YOUR GUESS?
```

What would you try next?




```
WANT THE RULES?YES
A HURKLE IS HIDING IN A GRID, LIKE THE ONE BELOW.
```

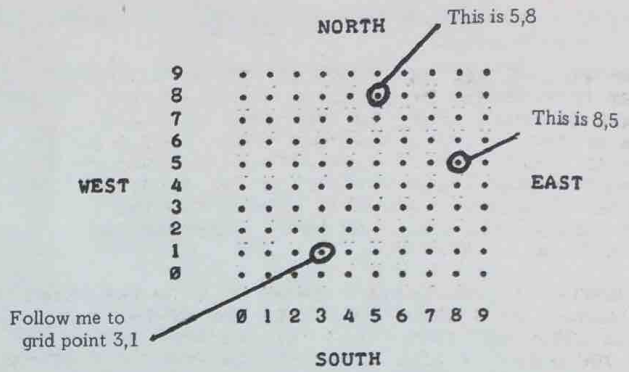


```
TRY TO GUESS WHERE THE HURKLE IS HIDING. YOU GUESS
BY TELLING ME THE GRIDPOINT WHERE YOU THINK THAT
THE HURKLE IS HIDING. HOMEBASE IS POINT  0,0  IN
THE SOUTHWEST CORNER. YOUR GUESS SHOULD BE A PAIR
OF WHOLE NUMBERS, SEPARATED BY A COMMA. THE FIRST
NUMBER TELLS HOW FAR TO THE RIGHT OF HOMEBASE AND
THE SECOND NUMBER TELLS HOW FAR ABOVE HOMEBASE YOU
THINK THE HURKLE IS HIDING. FOR EXAMPLE, IF YOU
THINK THE HURKLE IS 7 TO THE RIGHT AND 5 ABOVE
HOMEBASE, YOU ENTER  7,5  AS YOUR GUESS AND THEN
PRESS THE 'RETURN' KEY. AFTER EACH GUESS, I WILL
TELL YOU THE APPROXIMATE DIRECTION TO GO FOR YOUR
NEXT GUESS. GOOD LUCK!
```

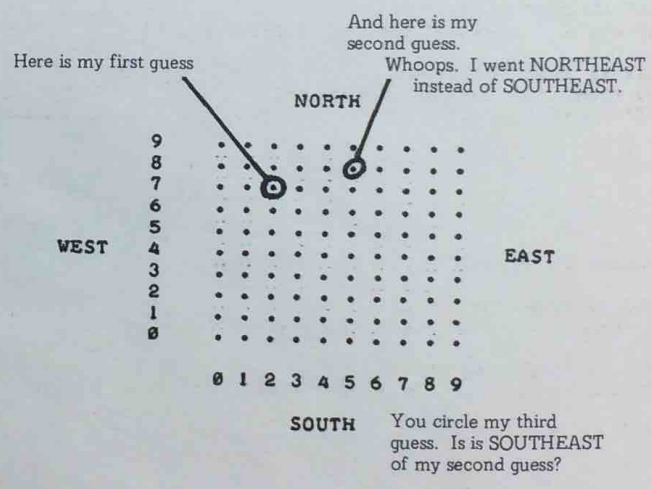

what is the best first guess?

is 1,2 southwest of 5,5?

what direction is 2,6 from 8,3?

what point is due north of 7,8?